Geography III
022
31/07/2023 8:30 AM – 11:30 AM

NESA NATIONAL EXAMINATION AND SCHOOL INSPECTION AUTHORITY

ADVANCED LEVEL NATIONAL EXAMINATIONS, 2022-2023

SUBJECT: GEOGRAPHY III

PAPER III: PHYSICAL GEOGRAPHY

DURATION: 3 HOURS

COMBINATIONS:

- HISTORY–ECONOMICS- GEOGRAPHY **(HEG**)
- MATHEMATICS –ECONOMICS- GEOGRAPHY **(MEG)**
- MATHEMATICS –PHYSICS – GEOGRAPHY **(MPG)**
- BIOLOGY-CHEMISTRY- GEOGRAPHY **(BCG)**
- LITERATURE IN ENGLISH -ECONOMICS- GEOGRAPHY **(LEG)**
- HISTORY- GEOGRAPHY- LITERATURE IN ENGLISH **(HGL)**

INSTRUCTIONS:

1) Do not open this question paper until you are told to do so.
2) Write your names and index number as they appear on your registration form and **DO NOT** write your names and index number on additional answer sheets if provided.
3) This paper consists of **THREE** sections **A**, **B** and **C**.
   SECTION A: This section is compulsory. **(60 marks)**
   SECTION B: Attempt any **TWO** questions. **(30 marks)**
   SECTION C: This section is compulsory. **(10 marks)**
4) Use a **blue** or **black** pen.

SECTION A: ATTEMPT ALL QUESTIONS. (60 marks)

1) Define the following terms:
   a) Amplitude. **(1 mark)**
   b) Intervisibility. **(1 mark)**

2) According to their mode of formation, sedimentary rocks are classified into three categories. Name them. **(3 marks)**

3) Mention any three factors that are responsible for soil formation. **(3 marks)**

4) Outline any three causes of climate change. **(3 marks)**

5) Write down any three necessary conditions for the growth of equatorial rainforests. **(3 marks)**

6) The diagram below shows a section of a river. Study it and answer the questions that follow.

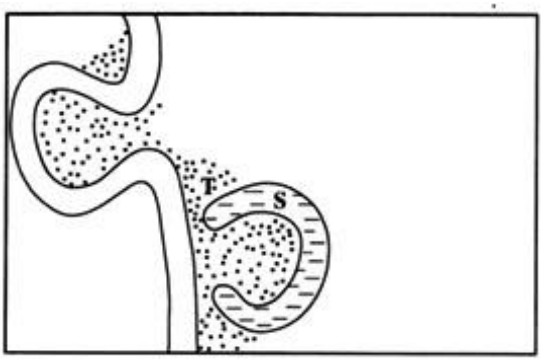

   a) Name the features marked **S** and **T**. **(2 marks)**
   b) State any two conditions that are necessary for the formation of the feature marked **S**. **(2 marks)**
   c) In which country are the down streams of the following rivers?
      i) The river Nile. **(1 mark)**
      ii) The river Niger. **(1 mark)**
      iii) The river Zambezi. **(1 mark)**

7) The diagram below shows some volcanic features. Study it and answer the questions that follow.

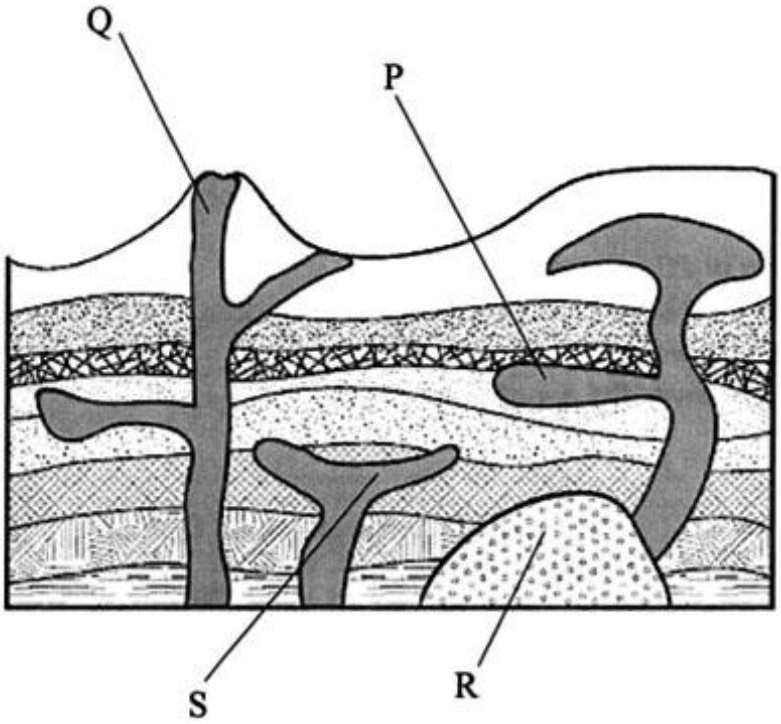

Name the features marked **P**, **Q**, **R** and **S**. **(4 marks)**

8) Explain any three factors that affect soil fertility. **(6 marks)**

9) Outline any five characteristics of desert climate. **(5 marks)**

10) Identify any five characteristics of savanna vegetation. **(5 marks)**

11) a) Differentiate between a marine delta and a Lacustrine delta. **(4 marks)**

b) Explain three conditions which are necessary for the formation of a delta. **(6 marks)**

12) Identify five main steps that are taken in enlarging a given map extract. **(5 marks)**

13) Match the lakes in the table below with their ways of formation. **(4 marks)**

Lakes	**Ways of formation**
Lake Kivu	Depositional lake from river riversal.
Lake Victoria	Rift valley.
Lake Burera	Lava dammed lake.
Lake Muhazi	Warping.

SECTION B: ATTEMPT TWO QUESTIONS ONLY. (30 marks)

14) The diagram below shows features that result from glacial erosion on a highland area. Study it and answer the questions that follow.

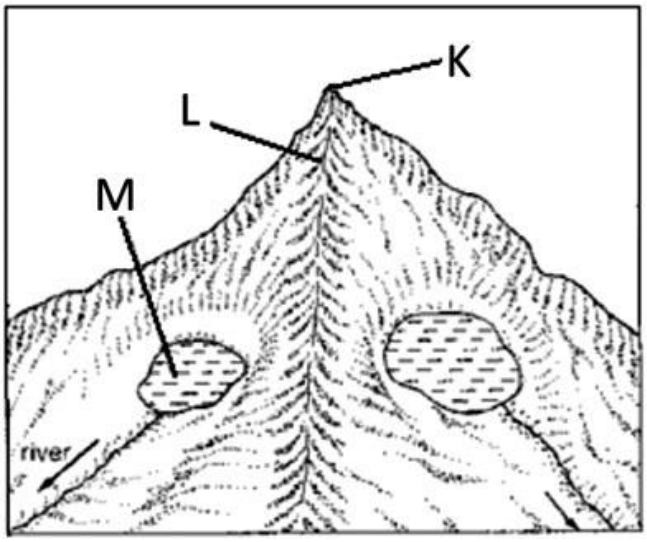

a) Define the term glaciation. **(2 marks)**

b) Name the features marked **K**, **L** and **M**. **(3 marks)**

c) Describe how the feature marked **M** is formed. **(4 marks)**

d) Explain any three causes of glacial deposition. **(6 marks)**

15) a) Describe any four conditions that are necessary for coral reef formation.

(5 marks)

b) Explain any five landforms that are produced by wave erosion.

(10 marks)

16) The map below shows the location of some mountain ranges.

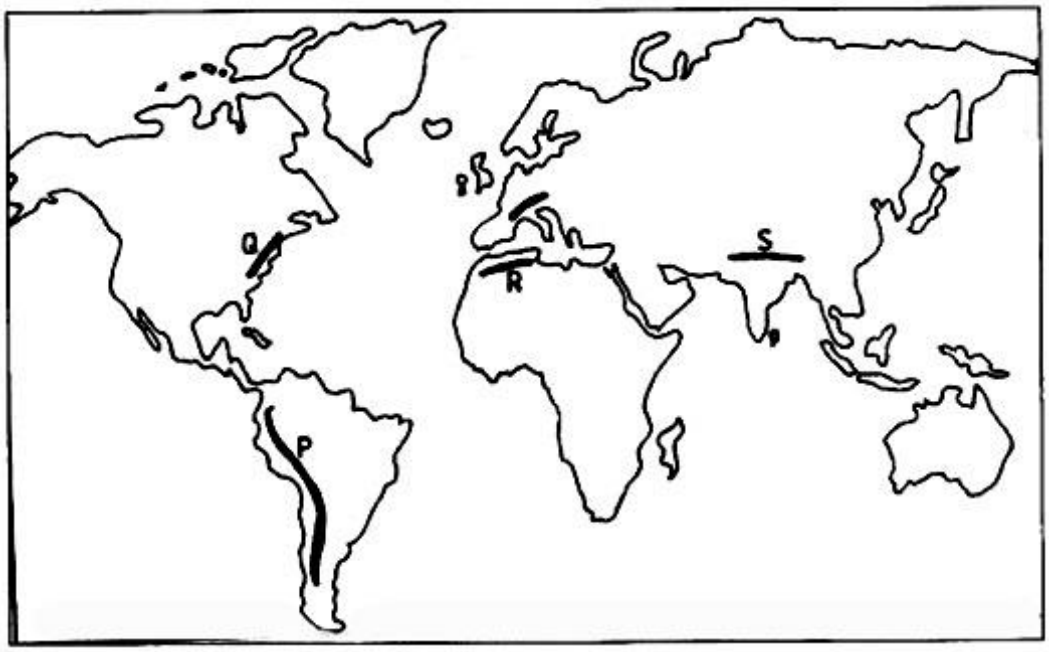

a) Name the ranges marked **P**, **Q**, **R** and **S**. **(4 marks)**

b) Apart from fold mountains, name three other features that result from folding. **(3 marks)**

c) Explain four ways in which fold mountains are significant to human activities. **(8 marks)**

SECTION C: COMPULSORY QUESTION. (10 marks)

17) Study the map extract of BICUMBI 1:25000 provided and answer the questions that follow.

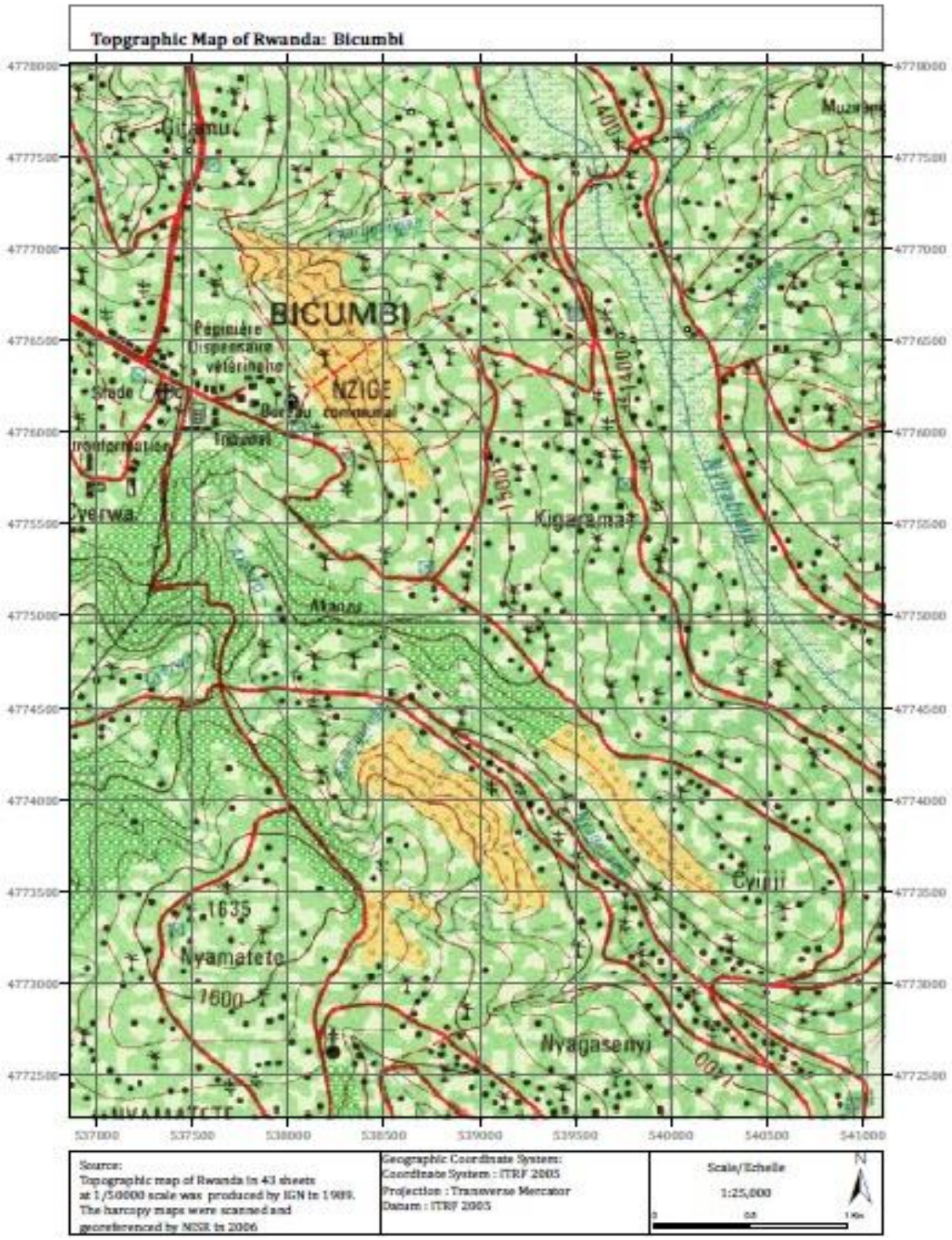

SCALE/ECHELLE 1:25.000

1000m 500 0 1 2 3 4 5 km

Main tarmac road
Route national asphaltée

Main murram road
Route national non asphaltée

Feeder road
Route communal

Track
Piste carrossable

Path
Sentier

Boulevard/road lined with trees
Route bordeé d'arbres

Road under constraction
Route en construction

Power/electric line
Ligne de transport d'énergie électrique

Bridge, footbridge
Pont en dur, pont en bois

Contours
Courbe de niveau

Contours, contour intervals, depression
Courbe de niveau, intercalaires, cuvette

Quarry, factory and/or industrial complex
Carrière, usine et/ou complexe industriel

Dense/nucleated settlement
Habitat concentré

Sparse, scatted
Dispence, remarquable

Hospital, health centre, dispensary
Hopitale, centre de santé, dispensaire

Sectorial bureau, school, dipping tank
Bureau de secteur, école, dipping tank

Religious edifices: church, temple, mosque
Edifices religieux: église, temple, mosque

Border post, market
Post de douane, marché

International airport, aerodrome/air strip
Aéroport international, aerodrome

River
Rivière

Pond, marsh, a well
Etang, marc, puits

Lake, swamp
Lac, marais

Falls, dam
Chutes, barrage

Border pillar, radio booster station
Borne frontier, antenne relais de radio

Natural forest, plantation
Fôrest naturelle, boisement

Savannah or pasture
Savane ou pasturage

Upland crops, valley crops
Cultures des collines

Rangeland, cash crop
Prairie, cultures industrielles

Papyrus
Papyrus

Bananas, sugar cane, coffee
Bananier, cane à sucre, café

Rice, tea, cotton
Riz, thé, cotton

Quinine, pyrethrum, bamboo
Quinquina, pyrèthre, bamboo

Terraces
Talus

Rock, Cliff
Rocher, abrupt

Trigonometrical pillar
Détail particulier

Mine 1 operational 2 derelict
Mine 1 activité 2 arrètée

a) Identify two main crops grown in the region covered by the map. **(2 marks)**

b) Identify two types of settlement patterns shown on the map. **(2 marks)**

c) By refering to contours, describe briefly the relief shown on the map. **(2 marks)**

d) Identify the advantages of such relief to agriculture. **(2 marks)**

e) Calculate the distance of the road of Gitamu from 4776500 to 4778000. **(2 marks)**

-END-